1) Find the intersection of the following two lines.
Graph the two lines.

$x + y = 10$ equation (1)

$x - y = 6$ equation (2)

a) Solve equation (1) for $y$: $y =$ ? 

b) Solve equation (2) for $y$: $y =$ ? 

c) Intersection of the lines is ? 

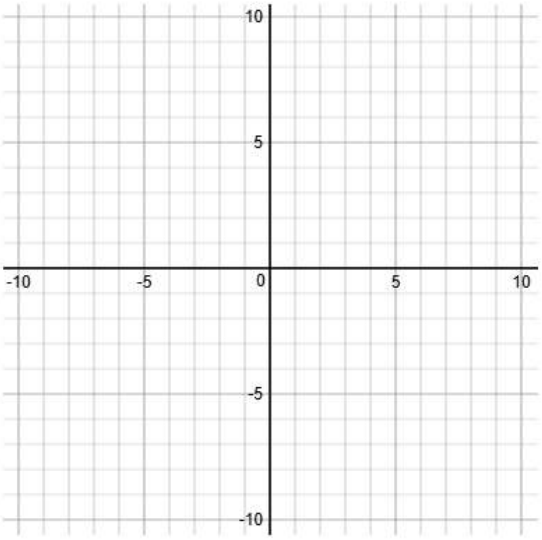


2) Find the intersection of the following two lines.
Graph the two lines.

$x + 2y = 12$ equation (1)

$x - 2y = 16$ equation (2)

a) Solve equation (1) for $y$: $y =$ ? 

b) Solve equation (2) for $y$: $y =$ ? 

c) Intersection of the lines is ? 

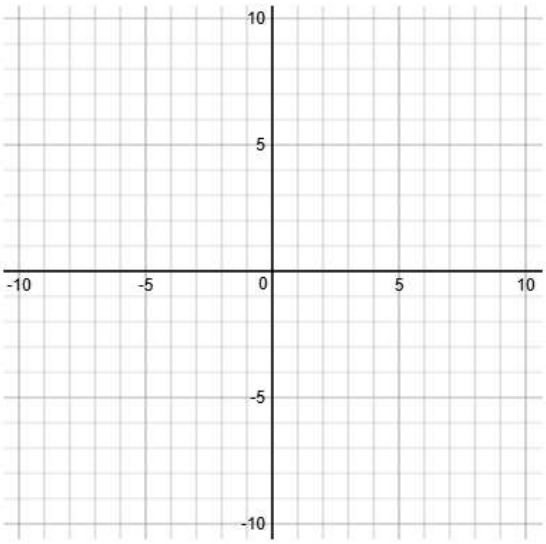


3) Find the intersection of the following two lines.
Graph the two lines.

$-3x + y = 8$ equation (1)

$3x - y = 4$ equation (2)

a) Solve equation (1) for $y$: $y =$ ? 

b) Solve equation (2) for $y$: $y =$ ? 

c) Intersection of the lines is ? 

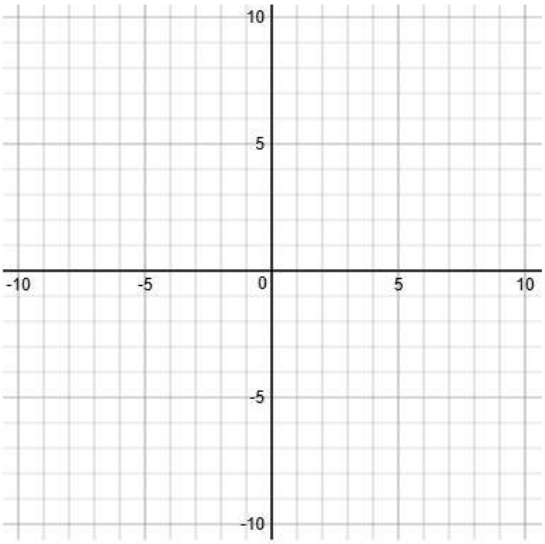

4) Find the intersection of the following two lines.
Graph the two lines.

$4x + y = 5$ equation (1)

$4x + y = 7$ equation (2)

a) Solve equation (1) for $y$: $y =$ ? 

b) Solve equation (2) for $y$: $y =$ ? 

c) Intersection of the lines is ? 

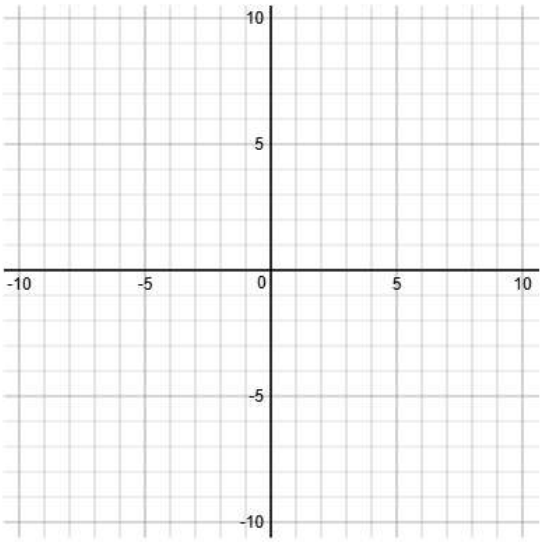


5) Find the intersection of the following two lines.
Graph the two lines.

$3x + 4y = 12$ equation (1)

$4x - 5y = 16$ equation (2)

a) Solve equation (1) for $y$: $y =$ ? 

b) Solve equation (2) for $y$: $y =$ ? 

c) Intersection of the lines is ? 

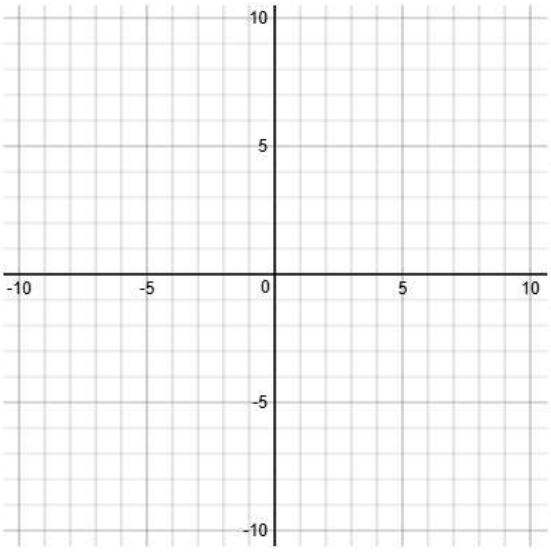


6) Find the intersection of the following two lines (if any).
Graph the two lines.

$x + y = 3$ equation (1)

$3x + 3y = 9$ equation (2)

a) Solve equation (1) for $y$: $y =$ ? 

b) Solve equation (2) for $y$: $y =$ ? 

c) Intersection of the lines is ? 

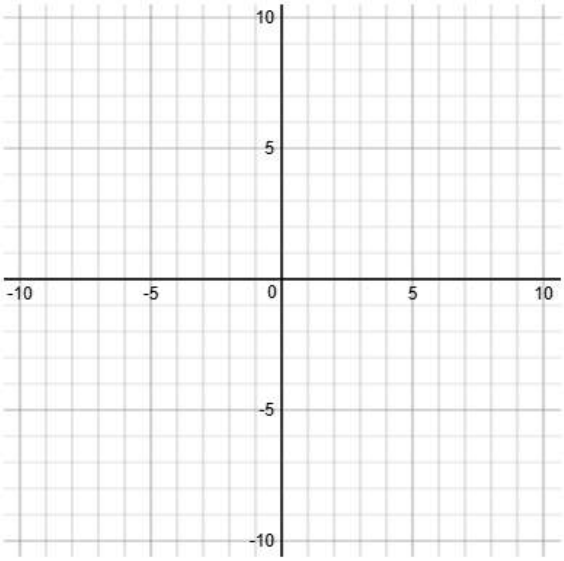

7) Find the intersection of the following two lines (if any).

Graph the two lines.

$2x + y = 3$ equation (1)

$6x + 3y = 7$ equation (2)

a) Solve equation (1) for $y$: $y =$ ____?____

b) Solve equation (2) for $y$: $y =$ ____?____

c) Intersection of the lines is ____?____

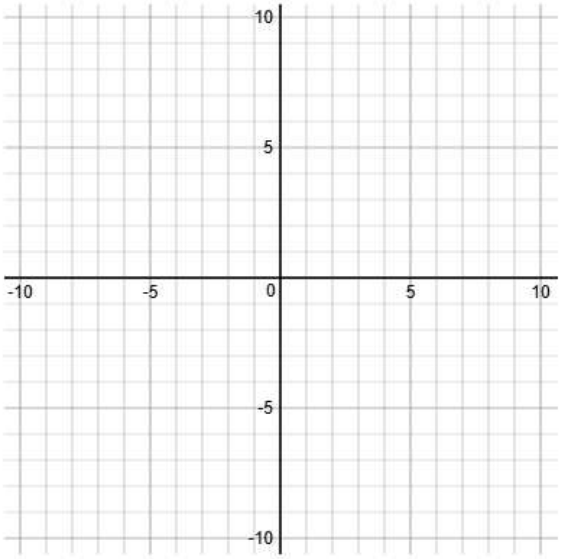


8) Find the intersection of the following two lines (if any).

Graph the two lines.

$-4x + y = 2$ equation (1)

$-8x + 2y = 1$ equation (2)

a) Solve equation (1) for $y$: $y =$ ____?____

b) Solve equation (2) for $y$: $y =$ ____?____

c) Intersection of the lines is ____?____

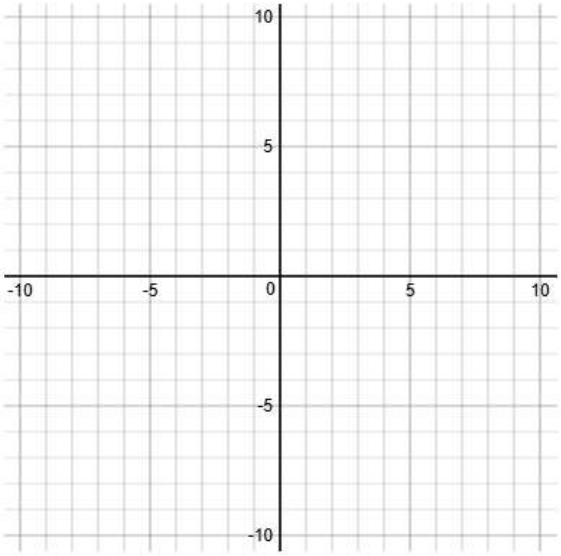


9) $3x + 4y = 5$
$y = -2x + 1$
Intersection = ?

10) $-5x + 6y = 12$
$x = -3y + 1$
Intersection = ?